10 Addition (upto 9)





Tell me !

* How many crayons did Aman dada give to Kajal for colouring the picture initially?
* How many crayons did Aman dada give to Kajal to colour the picture?
* How many total crayons did Kajal take from Aman dada to colour the picture?

Prepare the students to learn addition using different objects and situations.

* **Count the fingers in the pictures. Draw that many lines in the box. Count all the lines and write the total number of them.**

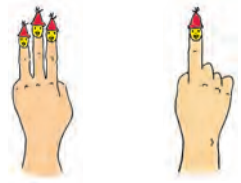	| | | |	4
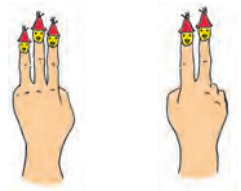		
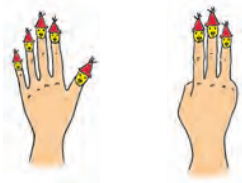		

* **Count the pictures in both the groups and write the total number of pictures.**

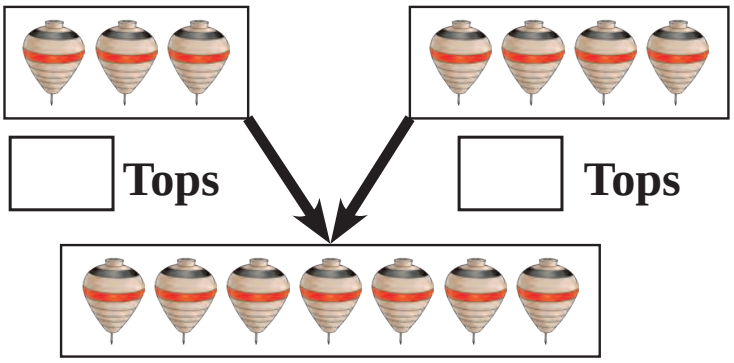

☐ Tops ☐ Tops

7 Tops

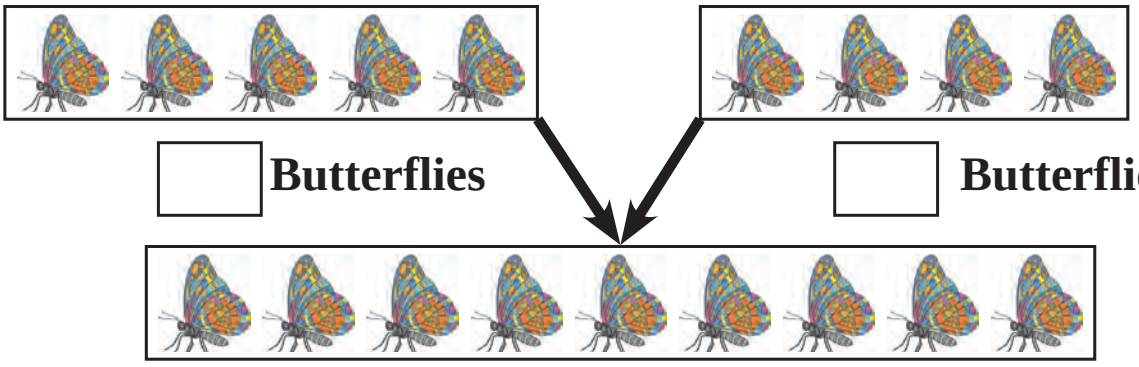

☐ Butterflies ☐ Butterflies

☐ Butterflies

* **Count the number of pictures in each group. Write the number of pictures in each group below. Count all the pictures together and write the total number of pictures.**

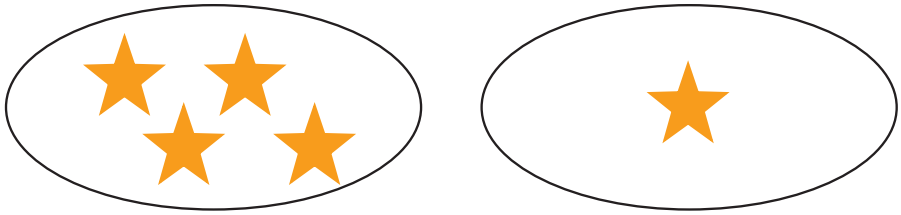

4	and	1	Total	5

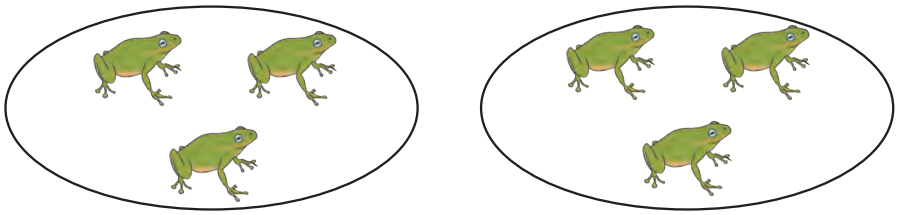

	and		Total	

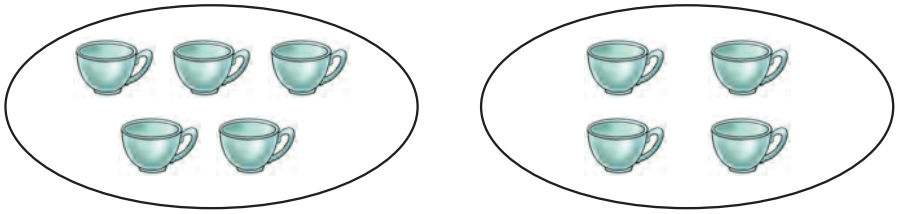

	and (+)		Total (=)	

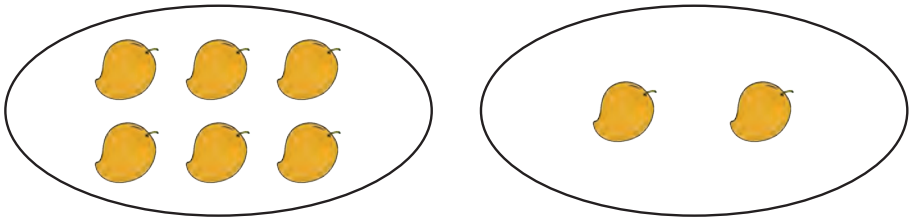

	+ (plus)		= (is equal to)	

Explain that 'to add' means to 'join together', 'to mix' or 'to increase' etc. Explain that, the sign '+' is used to indicate addition. Tell them '6+2=8' is read as 'six plus two is equal to eight'.

- **Addition (By horizontal arrangement)**

4	+	2	=	6
(Four)	(plus)	(Two)	(is equql to)	(Six)

6 + 3 = ☐

* **Solve.**

3 + 1 = 4	4 + 3 = ☐	5 + 4 = ☐
3 + 3 = ☐	4 + 4 = ☐	2 + 7 = ☐

* **Addition (By vertical arrangement)**



$$\begin{array}{r} 3 \\ +\ 2 \\ \hline 5 \end{array}$$

$$\begin{array}{r} \square \\ +\ \square \\ \hline \square \end{array}$$

* **Solve.**

6	8	5	7	2
+ 2	+ 1	+ 2	+ 1	+ 3
8	☐	☐	☐	☐

* **Solve.**

4 + 3 = 7 means

|||| |||

	4
+	3
	7

5 + 3 = ☐ means

	☐
+	☐
	☐

4 + 2 = ☐ means

	☐
+	☐
	☐

6 + 3 = ☐ means

	☐
+	☐
	☐

* **Solve.**

Sameer brought 4 flowers. Sulabha brought 3 flowers. How many flowers did they bring in all?

Sameer brought **4** flowers.

\+ Sulabha brought **3** flowers.

They brought 7 flowers together.

4 + 3 = 7

Suresh scored 7 runs, Rafiq scored 2 runs. How many runs did they score together?

Suresh scored **7** runs.

\+ Rafiq scored **2** runs.

Total ☐ runs.

☐ + ☐ = ☐

Vinod brought 6 buckets of water, Deepika brought 1 bucket of water. How many buckets did they bring altogether?

Vinod brought ☐ buckets of water.

\+ Deepika brought ☐ buckets of water

Total ☐ buckets of water.

☐ + ☐ = ☐

Gopal has 5 cows in his farm, Sunita has 3 cows in her farm. How many cows are there in total in their farms?

☐ cows in Gopal's farm.

\+ ☐ cows in Sunita's farm.

☐ **Total Cows.**

☐ + ☐ = ☐

Give practice to students with various examples of addition.

Try to understand

	5	guavas are in a plate.
	0	guavas in the plate in hand
Total	5	guavas in both the plates.

5 + 0 = 5

When no objects are added to a given number of objects, we get the same number of objects.

* **Solve.**

2 + 0 = 2

4 + 0 = ☐

6 + 0 = ☐

9 + 0 = ☐

1	7	8	3
+ 0	+ 0	+ 0	+ 0
1	☐	☐	☐

Using available objects, let the students make a practice to understand when no object is added to a given number of objects we get the same number of objects.