11 Subtraction

Try to understand







Some buses were parked on a bus-stand. Some of them left. How many buses were there? Did the number of buses increase or decrease? How many have left? How many remained? In this way ask questions regarding the remaining pictures also. Hence explain the concept of subtraction using terms 'to decrease', 'to take away', 'to remove', 'to make less' etc.

- **Subtraction (To take away/To remove from the group)**

* **Observe the picture. Write the correct number in the given box below.**

There are **5** laddoos in a jar.

2 laddoos are taken away from the jar.

Now ☐ laddoos have remained in the jar.

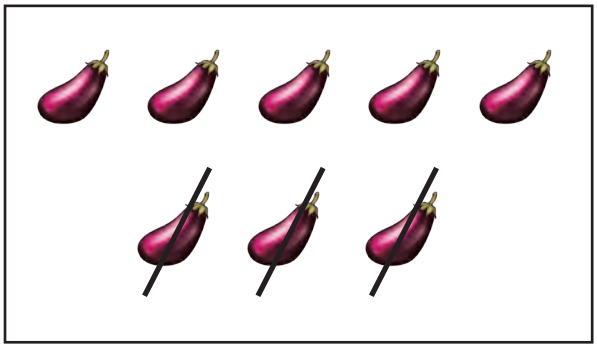

Tai picked up **3** flowers out of **9** so ☐ flowers are left.

☐ out of ☐ brinjals are taken for cooking, so ☐ brinjals are left.



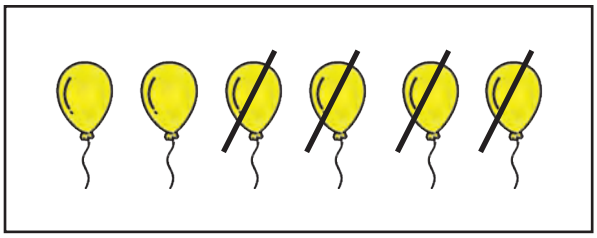

☐ out of ☐ bowls are removed. So ☐ bowls are left.

☐ out of ☐ balloons are given to Dada, so ☐ balloons are left.

* Subtraction (By horizontal arrangement)

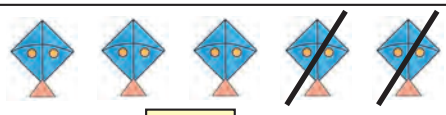

5	minus	2	is equal to	3
Total kites		removed kites		kites left

7	-	3	=	☐
Total aircrafts	(minus)	less aircrafts	(is equal to)	aircrafts left

☐ - ☐ = ☐

* Solve.

3 - 1 = 2	6 - 3 = ☐	7 - 2 = ☐
8 - 5 = ☐	9 - 7 = ☐	5 - 4 = ☐

* Subtraction (By vertical arrangements)

$$\begin{array}{r} 3 \\ -\ 2 \\ \hline 1 \end{array}$$



$$\begin{array}{r} 7 \\ -\ 4 \\ \hline 3 \end{array}$$



$$\begin{array}{r} 8 \\ -\ 3 \\ \hline 5 \end{array}$$

Tell students that the minus sign (-) is used for subtraction. '7 - 3 = 4', is read as 'seven minus three is equal to four'.

* **Solve.**

5	8	9	6	7
- 4	- 3	- 5	- 2	- 1
☐	☐	☐	☐	☐

* **Solve.**

5 - 2 = 3 means

	5
-	2
	3

7 - 3 = ☐ means

	7
-	3
	☐

6 - 4 = ☐ means

	☐
-	☐
	☐

9 - 8 = ☐ means

	☐
-	☐
	☐

* **Solve.**

Aai made 7 *chapatees* and gave 2 *chapatees* to *dada* in his tiffin. How many *chapatees* were left?

Aai made 7 *chapatees*

\- Gave to dada 2 *chapatees*

Left 5 *chapatees*

7 - 2 = 5

Amey has 8 papayas, 4 papayas are given to Sameer, how many papayas are left with Amey?

Amey has 8 papayas

\- Given to Sameer 4 papayas

Amey is left with ☐ papayas

8 - 4 = ☐

There are 9 flowers in a flower pot, 2 are taken out. How many are left in the flower pot?

There are ☐ flowers

- Taken away ☐ flowers.

Flowers left ☐

☐ - ☐ = ☐

A basket contains 6 *bhakaris*. Sarita ate 1 *bhakari*. How many *bhakaris* are left in the basket?

☐ *bhakaris* in a basket.

- ☐ *bhakari* Sarita ate

☐ *bhakaris* left in a basket.

☐ - ☐ = ☐

Try to understand

Laddoos in a dish **1**

- Ate *Laddoos* **1**

Laddoos left in the dish **0**

A dish has 1 *laddoo*. When that was eaten, 0 *laddoos* were left in the dish.

When same number of objects are removed from the given group of objects then 0 objects are left.

* **Solve.**

2 - 2 = 0

3 - 3 = ☐

4 - 4 = ☐

9 - 9 = ☐

7	5	8	6
- 7	- 5	- 8	- 6
☐	☐	☐	☐

Let the students make groups from available objects. Make them practice to focus till 0 objects are left over when all the objects are removed.