15 Ascending order-Descending order

Try to understand

Teacher : Students, look at these 3 lemons.

Mayuri, you place the smallest first.

Raju, you place the smaller of remaing lemons in front of the first one.

Ayesha, you place the remaining biggest lemon in front of them.

Teacher : Well done! You have arranged the lemons in order from the smallest to the biggest.

Tick (✓) the one who arranged the balls in the correct order from the biggest to the smallest according to size.		**Tick (✓) the one who arranged the balls in the correct order from the smallest to the biggest according to size.**	
Sarina	☐	**Shyam**	☐
Ravi	☐	**Manju**	☐
Aman	☐	**Enjal**	☐

Students should practice arranging objects according to their sizes; from smallest to biggest and also according to their lengths from shortest to longest and vice versa.

- **Ascending order of numbers by counting blocks.**

Teacher : Come on! Let's count the blocks and write the number below it.

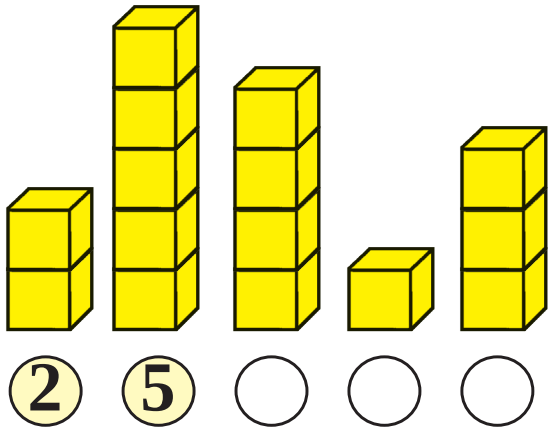

Teacher : Now, let us place the number of block in the order from smallest to biggest.

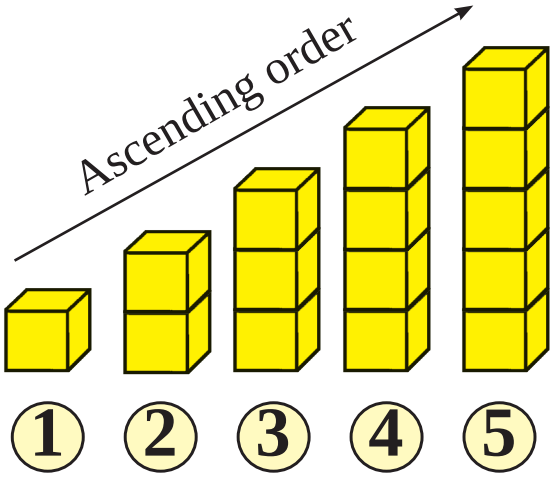

* **Write the numbers in the order from smallest to biggest.**



Explain the ascending order of numbers 1 to 9 with the help of blocks

- **Ascending order of numbers**

2, 5, 3

Teacher : Let us write the given numbers in the ascending order. Read these numbers Kunal.

Kunal : Two, five, three

Teacher : Which is the smallest of these numbers? Write that number.

Kunal : Two

2

Teacher : Which is the smaller of the remaining two numbers? Write it after two.

Kunal : Three

2, 3

Teacher : Which is remaining number? Write it after three.

Kunal : Five

2, 3, 5

Teacher : Oh! So 2 is the smallest number and 5 is the biggest number. So ascending order of given numbers is 2, 3, 5.

While writing the three given numbers in ascending order, write the smallest number first, then smaller of the two remaining numbers and finally the biggest number.

* **Write the numbers in the ascending order.**

Numbers	Ascending order
2, 1, 4	1, 2, 4
3, 5, 1	
4, 9, 2	
6, 8, 7	

- **Dscending order of numbers by counting blocks.**

Teacher : Come on! Let's count the blocks and write the number below.

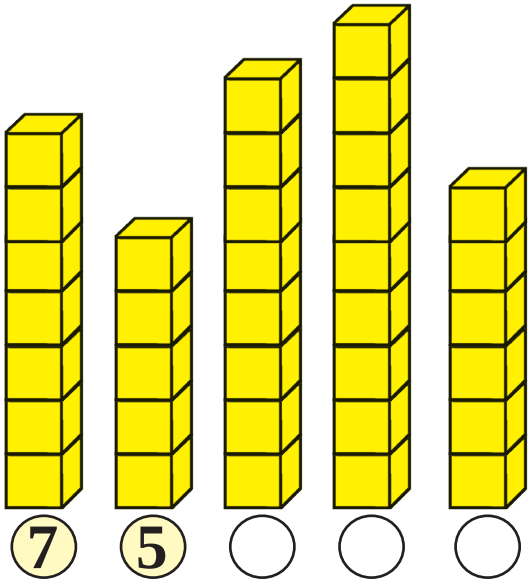

Teacher : Now, let us place the blocks in order from biggest to smallest.

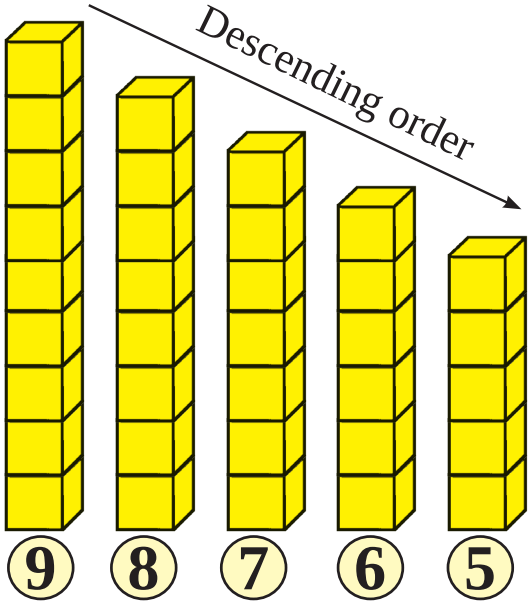

* **Write the numbers in order from biggest to smallest.**



Using blocks explain the descending order for numbers 1 to 9.

- **Descending order of numbers**

2, 5, 3

Teacher : Let us write the given numbers in the descending order. Will you read the numbers Megha.

Megha : Two, five, three

Teacher : Which is the biggest of these three numbers? Write it.

Megha : Five

5

Teacher : Which is the bigger of the remaining two after five? Write it after five.

Megha : Three

5, 3

Teacher : Which is the remaining number? Write it after three.

Megha : Two

5, 3, 2

Teacher : For the given numbers 2, 5 and 3, the biggest number is 5 and the smallest number is 2.

So the descending order is 5, 3, 2.

While writing the descending order for three given numbers, write the biggest number first then bigger of the two remaining numbers and finally the smallest number.

* **Write the numbers in descending order.**

Numbers	Descending order
8, 1, 5	8, 5, 1
9, 3, 6	
4, 2, 7	
1, 6, 3	