23 Measurement

- **Length**
  Rohit, Namita and Sanjay are playing marbles. Namita measured the distance of marble from the ditch using her handspan.



* **Use handspan to measure the distance and write the number.**

→ Length of my book is ☐ handspans.

→ Length of my hand is ☐ handspans.

→ Length of table is ☐ handspans.

→ Length of the blackboard in the classroom is ☐ handspans.

Meena tried to measure length of leaf by her handspan. She found that it is more convenient to use the fingures than handspan to measure the leaf.

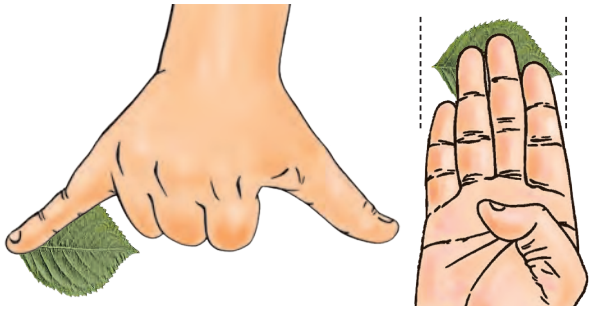

* **Look at the pictures. Decide whether handspan or fingers are more convenient to measure and draw a circle 'O' around it.**

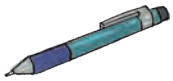	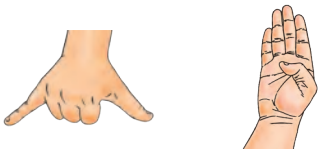
	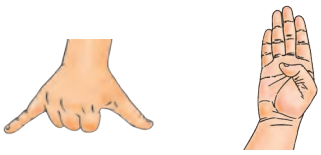
	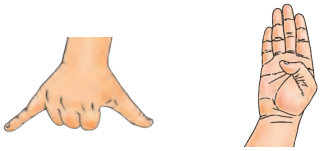
	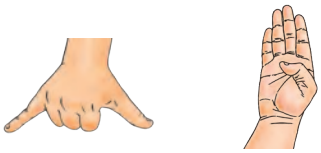

We can measure the length using handspan and footsteps as well.

* **Count with footsteps and write.**

Length/Distance	My estimation (steps)	Actual steps
Length of a wall of your classroom.		
Distance between the door and a wall of blackboard.		
Distance between door and staircase.		
Distance between opposite walls of your classroom.		

- **Heavy-Light**

  Atul helped his mother to place the things, she brought from the market. He picked and placed following items in the house.

* **Circle '◯' the heavier objects.**



* **Circle '◯' the lighter objects.**

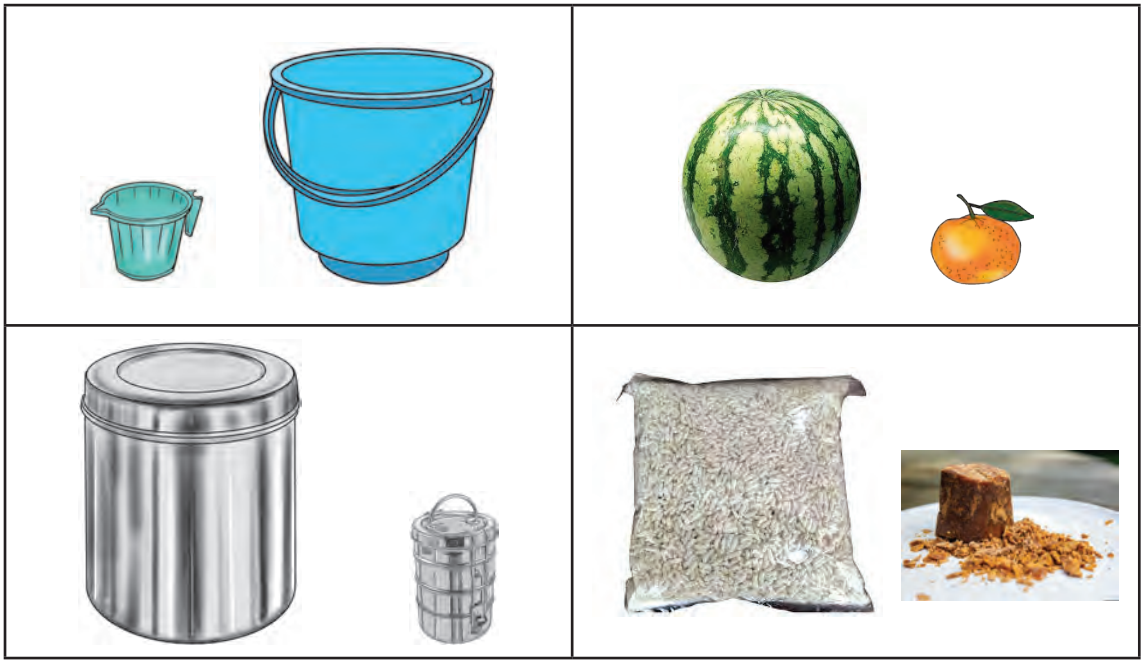

Make students available different objects and encourage them to identify heavier and lighter ones.

- **Capacity**

Try it.

Take a small bucket.

* The number of glasses ☐ ( ) of water needed to fill the bucket completely.
* The same was filled completely with ☐ vessels ( ) of water.
* Do the activity with the help of teacher and answer the following questions.

- How many bowls ( ) of water will completely fill your water bottle? ☐ bowls
- How many same bowls ( ) of water will completely fill your friend's water bottle? ☐ bowls
- Which bottle held more bowls of water? Mine ☐ Friends ☐
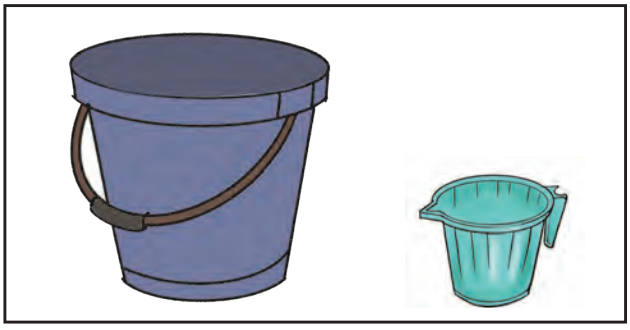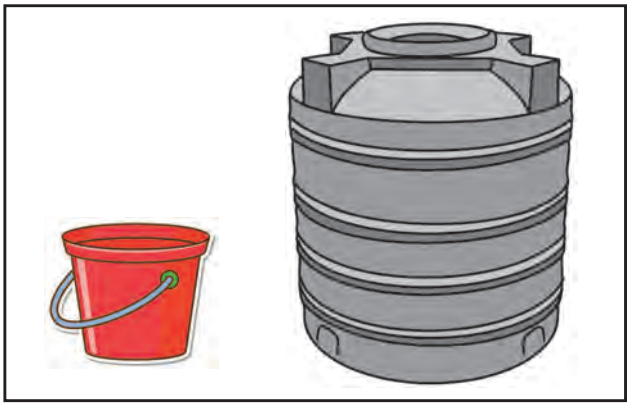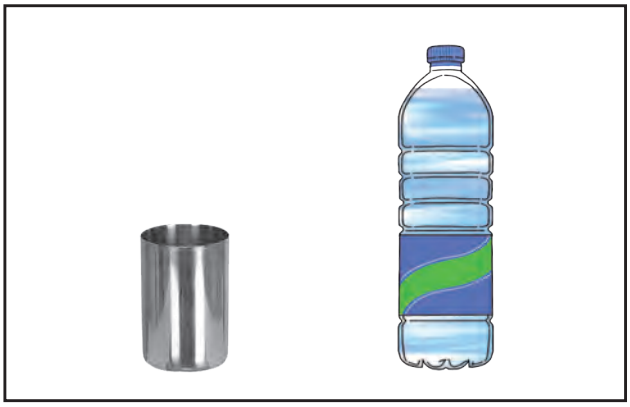
* **Circle '◯' the container which will hold more water .**