# Let's untie a ten in order to subtract

Every box has 10 pencils

I want 20 pencils.



I want 25 pencils.

I want 4 pencils.

How to give them?

**Rama :** I have two boxes, each containing 10 pencils and 5 loose pencils. I want to give 7 of them to my friends. How to do that ?

**Yash :** Open one box. You will get 10 and 5, that is 15 loose pencils. Count 7 of them to give to your friends.

15 is equal to

1 Tens 5 Units

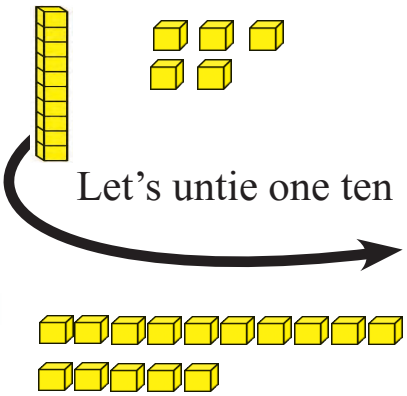


15 Units

1 Ten 5 Units equals 15 Units

32 is equal to

3 Tens 2 Units

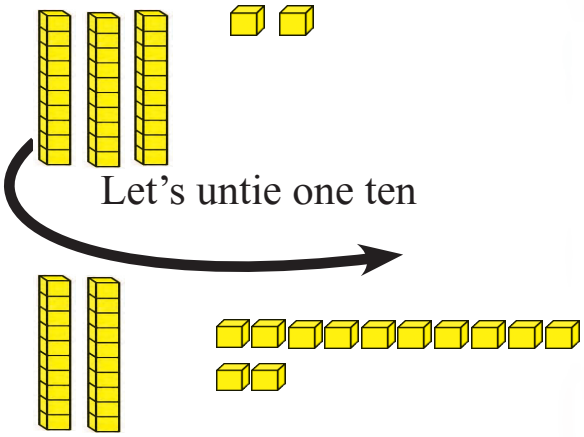


2 Tens 12 Units

3 Tens 2 Units equals 2 Tens 12 Units

## Subtraction : by untying or borrowing or opening out a ten.

22 – 7 = ☐

| Tens | Units |
|---|---|
| 1 | 12 |
| – | 7 |
| 1 | 5 |

22 – 7 = 15

30 – 9 = ☐

| Tens | Units |
|---|---|
| 2 | 10 |
| – | 9 |
| 2 | 1 |

30 – 9 = 21

63 – 6 = ☐

| Tens | Units |
|---|---|
| 5 | 13 |
| – | 6 |
| 5 | 7 |

63 – 6 = 57

## Untie or borrow or open out a ten and subtract.

23 – 5 = ☐

| Tens | Units |
|---|---|
| 1 | 13 |
| – | ☐ |
| 1 | ☐ |

25 – 8 = ☐

| Tens | Units |
|---|---|
| 1 | ☐ |
| – | ☐ |
| ☐ | ☐ |

37 – 9 = ☐

| Tens | Units |
|---|---|
| ☐ | ☐ |
| – | ☐ |
| ☐ | ☐ |

Let us present the subtraction 35 - 17 as shown below.

| Tens | Units | |
|---|---|---|
| | | |
| 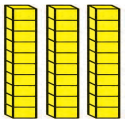 | | 3 T 5 U |
| 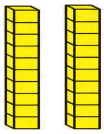 | 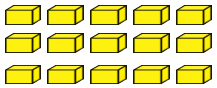 | 2 T 15 U |

| Tens | Units |
|---|---|
| 2 | 15 |
| ~~3~~ | ~~5~~ |
| – 1 | 7 |
| 1 | 8 |

**Instructions for teachers**

While adding or subtracting we sometimes put a number greater than 9 in the units place. However, in the end we do not write a number greater than 9 in the units place. Please explain this to the students.

## Subtract : by untying or borrowing or opening out a ten.

| Tens | Units |
|---|---|
| | |
| 4 | 0 |
| − 1 | 1 |
| | |

| Tens | Units |
|---|---|
| | |
| 6 | 7 |
| − 2 | 9 |
| | |

| Tens | Units |
|---|---|
| | |
| 9 | 2 |
| − 5 | 3 |
| | |

17 – 9 = ☐
30 – 12 = ☐
51 – 18 = ☐
46 – 17 = ☐
83 – 59 = ☐
74 – 25 = ☐

- Bhavana has watered 27 of 43 trees. How many does she still have to water ?

  What is given ? Total trees 43, of them 27 watered. What is asked ? How many to be watered. What shall we do ? Subtract.

We cannot subtract 7 units from 3 units Hence, we borrow 1 ten and make 10 units of it. Thus we get 13 units.

We will subtract 27 from 43

| Tens | Units | |
|---|---|---|
| 3 | 13 | |
| ~~4~~ | ~~3~~ | Total trees |
| − 2 | 7 | Watered trees |
| 1 | 6 | Trees to be watered. |

- In a mathematical grid, 70 counters are placed of which 42 are green and the others are red. How many red ones are there ?
- Swara had 92 beads. She gave Pari 59 of them. How many does she have now ?
- For Diwali, Aai made 67 *karanjis* and 48 *anarasas*. By how many is the number of *anarsas* less than that of *karanjis* ?
- In a Zilla Parishad School annual gathering, 78 of the 81 students took part. How many students did not take part ?

TLTAAF