7. Coins and Notes

Exchanging big coins and notes for smaller ones

◆ **The change for 1 rupee is**

two coins of 50 paise

◆ **The change for 2 rupees is**

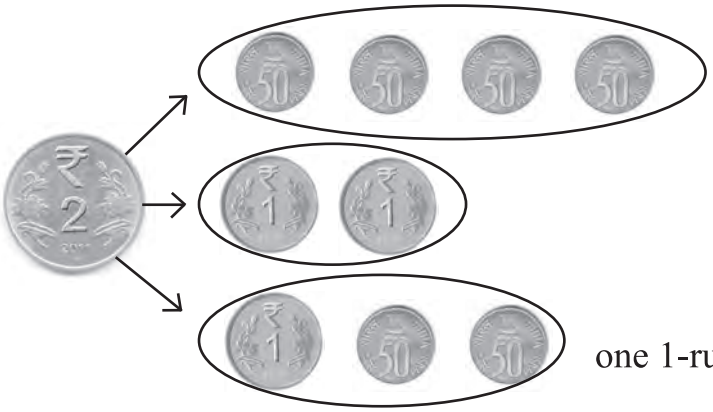

four 50 paise coins

or

two 1-rupee coins

or

one 1-rupee coin and two 50 paise coins.

◆ **The change for a 5-rupee coin is**

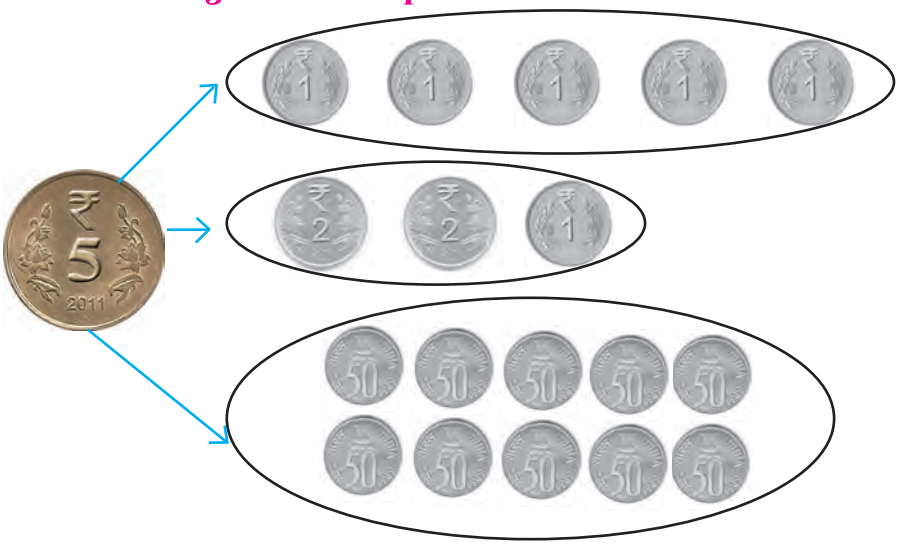

☐ one-rupee coins

or

☐ 2-rupee coins

and ☐ 1-rupee coin

or

☐ 50 paise coins

◆ **The change for a 10-rupee coin is**

☐ 50 paise coins

☐ 1-rupee coins

☐ 2-rupee coins

☐ 2-rupee coins and ☐ 1-rupee coins

☐ 5-rupee coins

Mother : Nandu, go to the shop and get change for this 500-rupee note.

The change brought by Nandu

◆

₹ 20 + ₹ 20 + ₹ 10

₹ 10 + ₹ 10 + ₹ 10 + ₹ 10 + ₹ 10

The change for a 50-rupee note is two 20-rupee notes and one 10-rupee note or five 10-rupee notes. Describe other ways of getting change for the note.

◆ 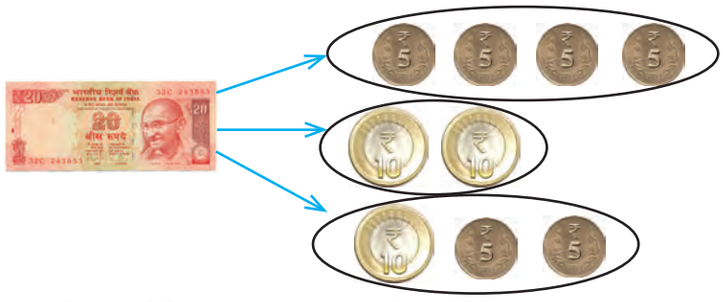

The change for a 20-rupee note is four 5-rupee coins or two 10-rupee coins or one 10-rupee coin and two 5-rupee coins. Describe other ways of getting change for the note.

◆ **The change for a 2000-rupee note is**

- ☐ 20-rupee notes
- ☐ 50-rupee notes
- ☐ 100-rupee notes
- ☐ 500-rupee notes

Small notes and coins can also be exchanged for a single bigger note or coin.

₹100

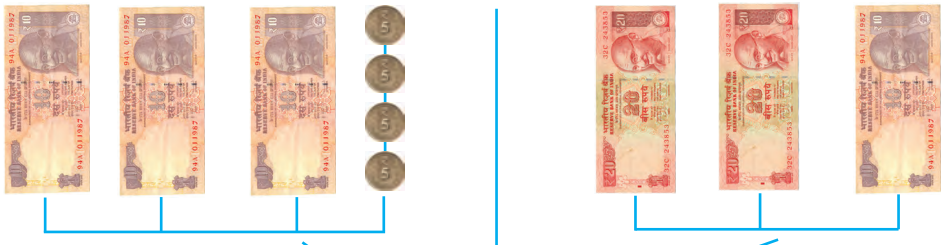

₹50

Exercise

1. Write the correct number in the square.

(1) ☐ 5-rupee notes
☐ 10-rupee notes
☐ 2-rupee coins and ☐ 10-rupee coins

→ one ₹50 note

(2) ☐ 5-rupee notes
☐ 10-rupee notes and ☐ 20-rupee notes
☐ 20-rupee notes
☐ 50-rupee notes

→ one ₹100 note

(3) ☐ 10-rupee notes

☐ 20-rupee notes

☐ 50-rupee notes

☐ 100-rupee notes

☐ 500-rupee notes

one ₹2000 note

2. Ajay has 9 notes. The total value of those notes is ₹500. Which notes does Ajay have and how many of each?
3. Swati has some 100-rupee notes, 50-rupee notes and 20-rupee notes. If the total value of the notes is ₹500, how many notes of each denomination does Swati have?
4. Nandu has 6 notes. The total value of the notes is ₹1000. Which notes does Nandu have and how many of each?
5. Salma has 11 notes. If the total value of the notes is ₹1000, which notes does Salma have and how many of each?

◆

10 notes of 10 rupees

2 notes of 50 rupees

The value of one 100-rupee note is 10 times the value of a 10-rupee note or twice the value of a 50-rupee note.

◆

₹100 + ₹100 + ₹100 + ₹100 + ₹100

10 notes of 50 rupees

The value of a 500-rupee note is five times the value of a 100-rupee note or 10 times the value of a 50-rupee note.

◆

4 notes of 500-rupees

20 notes of 100-rupees

The value of a 2000-rupee note is ☐ times that of a 500-rupee note.

The value of a 2000-rupee note is ☐ times that of a 100-rupee note.